CS 344: Algorithms **Rutgers: Spring 2026**

Homework #1

Name(s): Iris$_1$ Martinez$_1$

Homework Policy

- You may consult all course materials (lecture notes, textbook, slides, etc.) while writing your solutions. No external resources are permitted.
- **All submissions should be typeset in LaTeX, handwritten solutions are not accepted**.
- Remember to always **prove the correctness** of your algorithms and **analyze their running time** (or any other efficiency measure asked in the question).
- Homework assignments are completed and submitted in fixed groups of 3 students. Only **one member of the group submits** the full solution on Canvas. The submission must include the names of all group members. The other two members do **not need to submit anything separately**.
- You may discuss the problems with any of your classmates, even those outside your group. However, **each group must write and submit their solutions independently**.
- Attempt the challenge problems only if you find them interesting.

Acknowledgment (to be reviewed and edited as needed)

I, **Iris Martinez (bam322)**, completed this assignment individually. For assitance in LaTeX typesetting, I referred to Gemini 3 Pro for assitance. AI tools were not used in the development of solutions. For problem 1, I made use of a graphic calculator to inform my observations of function behavior and guide my proofs. **I hereby affirm that all external assistance utilized in the preparation of this document has been properly acknowledged**.

Problem 1. This question reviews asymptotic notation. You may assume the following inequalities for this question (and throughout the course): For any <u>constant</u> $c \geq 1$,

$$(\log n)^c = o(n) \quad , \quad n^c = o(n^{c+1}) \quad , \quad c^n = o((c+1)^n) \quad , \quad (n/2)^{(n/2)} = o(n!).$$

(a) Rank the following functions based on their asymptotic value in increasing order, i.e., list them as functions $f_1, f_2, f_3, \ldots, f_{14}$ such that $f_1 = O(f_2)$, $f_2 = O(f_3), \ldots, f_{13} = O(f_{14})$. Remember to write down your proof for each equation $f_i = O(f_{i+1})$ in the sequence above. **(20 points)**

$\log^3 n$	$\frac{n}{\log n}$	$\sqrt{n}$	n^2	$n^{\log n}$
$n^{1.5}$	$e^{\sqrt{n}}$	e^n	$n!$	2^{n^2}
3^n	10^n	n^n	$(\log n)^{\log n}$	$n^{\log \log n}$

Hint: For some of the proofs, you can simply show that $f_i(n) \leq f_{i+1}(n)$ for all <u>sufficiently large</u> n which immediately implies $f_i = O(f_{i+1})$.

Solution.

- **Smallest**
- $\log^3 n$ because $log^3 n$ is $O(\sqrt{n})$.

  My proof is as follows:

  $\sqrt{n} - \log^3(n) >= 0$ This statement claims that $\sqrt{(}n)$ is bigger than $\log^3(n)$. We will solve to find if there exists a solution to this inequality.

  $n - (\log^3(n))^2 >= 0$

  $n - (\log^6(n)) >= 0$

  $n >= \log^6 n$

  $n^{1/6} >= \log n$

  $b^{n^{1/6}} >= n$

  We know have an equaiton we can solve for all positive n for a base b that makes $b^{n^{1/6}}$ greater than or equal to n and therefore we have proven that $\sqrt{n}$ will always domiante $\log^3 n$ as n goes to infinity.
- $\sqrt{n}$

  My proof is as follows:

  $\sqrt{n} = O(\frac{n}{\log n})$ because $\log n$ becomes irrelevant to n as n goes to infinity. So $\frac{n}{/} logn$ looks linear. Linear functions are always larger than square root ones, so $\sqrt{n} = O(\frac{n}{\log n})$
- $\frac{n}{\log n}$

  My proof is as follows:

  $\frac{n}{\log n} = O(n^{1.5})$ because $\frac{n}{\log n}$ performs linearly in the limit, where $n^{1.5}$ is exponential.
- $n^{1.5}$

  My proof is as follows:

  $n^{1.5} = O(n^2)$ because they have the same base but the exponent $2 > 1.5$

- n^2

  My proof is as follows:

  $n^2 = O(\log n^{\log n})$ because as n goes to infinity, we are comparing $n * n$ with $(\log n)_1 * (\log n)_2 * ... * (\log n)_{\log n}$

  If we use the heuristic understanding that more multiplications makes for a larger function, can see how in the limit we are multiplying $\log n$ so many more times that the large value for n is irrelevant.

  We can also look at this algebraically like this:

  $n^2 = (\log n)^{\log n}$

  $ln(n^2) = ln((\ln n)^{lnn})$ $2 * ln(n) = \ln n * (\ln \ln n)$

  $2 = \ln \ln n$

  2 is less than $\ln \ln n$ in the limit so we prove $(\log n)^{logn}$ is bigger

- $(\log n)^{\log n}$

  $(\log n)^{\log n}$ is $\theta(n^{\log \log n})$

  My proof is as follows:

  $(\log n)^{\log n} = n^{\log \log n}$

  $(\log n) = n^{\frac{\log \log n}{\log n}}$

  $(\log n) = n^{\log_n \log n}$

  $\log n = \log n$

  This shows that the functions are equal and therefore they have a θ relationship

- $n^{\log \log n}$

  My proof is as follows:

  $n^{\log \log n} = O(n^{\log n})$ because they have the same base but $\log n$ will always be a bigger exponent than $\log \log n$

- $n^{\log n}$

  My proof is as follows:

  $e^{\sqrt{n}} = n^{\ln n}$

  $\ln(e^{\sqrt{n}}) = \ln(n^{\ln n})$

  $\sqrt{n} = \ln^2 n$

  $n^{\frac{1}{4}} = \ln n$

  $\lim_{x \to \infty} \frac{n^{\frac{1}{4}}}{\ln n} = \infty$ We now apply l'hopital's

  $\lim_{x \to \infty} \frac{\frac{1}{4} n^{-3/4}}{\frac{1}{n}}$ I skip some steps for brevity

  $\lim_{x \to \infty} \frac{n^{\frac{1}{4}}}{4} = \infty$ Which shows that the $e^{\sqrt{n}}$ is bigger

- $e^{\sqrt{n}}$

  My proof is as follows:

  $e^{\sqrt{n}} = O(e^n)$ because $n > \sqrt{n}$

- e^n

  My proof is as follows:

  $e^n = O(3^n)$ because $3 > e$

- 3^n

  My proof is as follows:

  $e^n = O(10^n)$ because $10 > 3$

- 10^n

  My proof is as follows: $10^n = O(n!)$ because as n goes to infinity we begin to multiply by numbers much larger than 10 a very large number of times, causing us to overtake the constant multiplication by a factor of 10 of 10^n

- $n!$

  My proof is as follows:

  n factorial multiplies n times by numbers that steadily get smaller than n. n^n multiplies by exactly n just as many times as n factorial. Therefore it must always be bigger.

- n^n

  My proof is as follows:

  $logn^n = log(2^{n^2})$ if we ignore the bases we get

  $n = 2^n$

  Which is clearly bigger than just n

- 2^{n^2}
- **Largest**

(b) Consider the following four different functions $f(n)$:

$$1 \qquad \log^4 n \qquad n^{\sqrt{\log n}} \qquad 5^{n^3}.$$

For each of these functions, determine which of the following statements is true and which one is false. Remember to write down your proof for each choice. **(10 points)**

- $f(n) = \Theta(f(n-1))$;
- $f(n) = \Theta(f(\frac{n}{2}))$;
- $f(n) = \Theta(f(\sqrt{n}))$;

Example: For the function $f(n) = 5^{n^3}$, we have $f(n-1) = 5^{(n-1)^3}$. Expanding,

$$5^{(n-1)^3} = 5^{n^3-3n^2+3n-1} = \frac{5^{n^3}}{5^{3n^2-3n+1}}.$$

Thus,

$$\lim_{n\to\infty} \frac{f(n)}{f(n-1)} = \lim_{n\to\infty} \frac{5^{n^3}}{5^{n^3-3n^2+3n-1}} = 5^{3n^2-3n+1} \to \infty.$$

As such, $f(n) \neq O(f(n-1))$ and the first statement is false for 5^{n^3}.

Solution.

- $f(n) = 1$
  - For all of of the listed statements, they are true. As a constant function, $f(n) = 1$ is going to be $\theta(f(x))$ where $f(x)$ can be anything.
- $f(n) = (\log n)^4$
  - $f(n) = \theta(f(n-1))$

    $\lim_{n\to\infty} \frac{(\log n)^4}{(\log(n-1))^4} \approx 1$

    Therefore, $f(n) = \theta(f(n-1))$
  - $f(n) = \theta(f(n/2))$

    $\lim_{n\to\infty} \frac{(\log n)^4}{(\log(n/2))^4}$

    $\lim_{n\to\infty} \frac{(\log n)}{(\log n)-\log 2} \approx 1$

    Therefore, $f(n) = \theta(f(n/2))$
  - $f(n) = \theta(f(\sqrt{n}))$

    $\lim_{n\to\infty} \frac{(\log n)^4}{(\log(\sqrt{n}))^4}$

    $\lim_{n\to\infty} \frac{\log n}{\log n^{\frac{1}{2}}} \approx 2$

    Therefore, $f(n) = \theta(f(\sqrt{n}))$
- $f(n) = n^{\sqrt{\log n}}$
  - $f(n) = \theta(f(n-1))$

    $\lim_{n\to\infty} \frac{n^{\sqrt{\log n}}}{n^{\sqrt{\log n-1}}} \approx 0$

    Therefore, $f(n) = \theta(f(n-1))$
  - $f(n) \neq \theta(f(\frac{n}{2})$

    $\lim_{n\to\infty} \frac{n^{\sqrt{\log n}}}{n^{\sqrt{\log \frac{n}{2}}}}$

    $\lim_{n\to\infty} \frac{n^{\sqrt{\log n}}}{n^{\sqrt{\log \frac{n}{2}}}} = \infty$

    Therefore, $f(n) \neq \theta(f(\frac{n}{2}))$
  - $f(n) \neq \theta(f(\sqrt{n})$

    $\lim_{n\to\infty} \frac{n^{\sqrt{\log n}}}{n^{\sqrt{\log \sqrt{n}}}}$

    $\lim_{n\to\infty} \frac{n^{\sqrt{\log n}}}{n^{\sqrt{\log \sqrt{n}}}} = \infty$

    Therefore, $f(n) \neq \theta(f(\sqrt{n}))$
- $f(n) = 5^{n^3}$
  - $f(n) \neq \theta(f(n-1))$ Given.
  - $f(n) \neq \theta(f(\frac{n}{2}))$

    $\lim_{n\to\infty} \frac{5^{n^3}}{5^{\frac{n}{2}^3}}$

    $\lim_{n\to\infty} \frac{5^{n^3}}{5^{\frac{n^3}{8}}}$

$\lim_{n\to\infty} \frac{5^{n^3}}{5^{\frac{n^3}{8}}} = \infty$

Therefore, $f(n) \neq \theta(f(\frac{n}{2}))$

- $f(n) \neq \theta(f(\sqrt{n}))$

  $\lim_{n\to\infty} \frac{5^{n^3}}{5^{\sqrt{n}^3}}$

  $\lim_{n\to\infty} \frac{5^{n^3}}{5^{\frac{3}{2}}}$

  $\lim_{n\to\infty} \frac{5^{n^3}}{5^{\frac{3}{2}}} = \infty$

  Therefore, $f(n) \neq \theta(f(\sqrt{n}))$

(c) For each of the following functions, state whether $f(n) = O(g(n))$ or $f = \Omega(g(n))$, or if both are true, then write $f = \Theta(g(n))$. No proofs required for this problem. **(15 points)**

(a) $f(n) = \sum_{k=1}^{n} \log k$ and $g(n) = \log(n!)$

(b) $f(n) = n^{\log_3(n)}$ and $g(n) = n^{\sqrt{\log n}}$

(c) $f(n) = \sum_{k=1}^{n} k^2$ and $g(n) = n^3$

(d) $f(n) = 2^{\sqrt{n \log n}}$ and $g(n) = 3^{\sqrt{n}}$

(e) $f(n) = n^{\log n}$ and $g(n) = n^{\log \log n}$

(f) $f(n) = 10^n$ and $g(n) = n^{n/2}$

(g) $f(n) = n!$ and $g(n) = (n/e)^n$

(h) $f(n) = \sum_{k=1}^{n} k \log k$ and $g(n) = \frac{n^2}{\log n}$

(i) $f(n) = (\log n)^{\log n}$ and $g(n) = 2^{\log n}$

(j) $f(n) = e^{\sqrt{n}}$ and $g(n) = 2^n$

Solution. Solution to part (c) goes here.

Problem 2. Your goal in this problem is to analyze the *runtime* of the following (imaginary) recursive algorithms for some (even more imaginary) problem:

(A) Algorithm A divides an instance of size n into 5 subproblems of size $n/5$ each, recursively solves each one, and then takes $O(n)$ time to combine the solutions and output the answer.

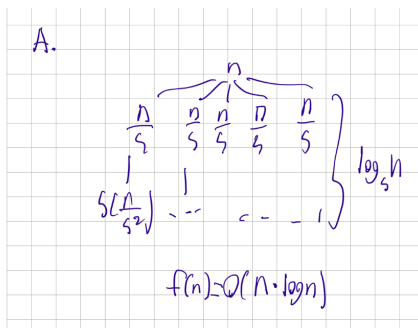

Figure 1: Recursion tree for algorithm A.

Solution. _____

(B) Algorithm Algorithm B divides an instance of size n into 5 subproblems of size $n/2$ each, recursively solves each one, and then takes $O(n^2)$ time to combine the solutions and output the answer.

Solution. _____

(C) Algorithm C divides an instance of size n into 5 subproblems of size $n/2$ each, recursively solves each one, and then takes $O(n^{0.8})$ time to combine the solutions and output the answer.

Solution. Solution to part (c) goes here.

_____

(D) D divides an instance of size n into 2 subproblems, one with size $n/4$ and one with size $n/5$, recursively solves each one, and then takes $O(n)$ time to combine the solutions and output the answer.

Solution. Solution to part (d) goes here.

_____

(E) Algorithm E divides an instance of size n in to 3 subproblems of size $n-1$ each, recursively solves each one, and then takes $O(1)$ time to combine the solutions and output the answer.

Solution. Solution to part (e) goes here.

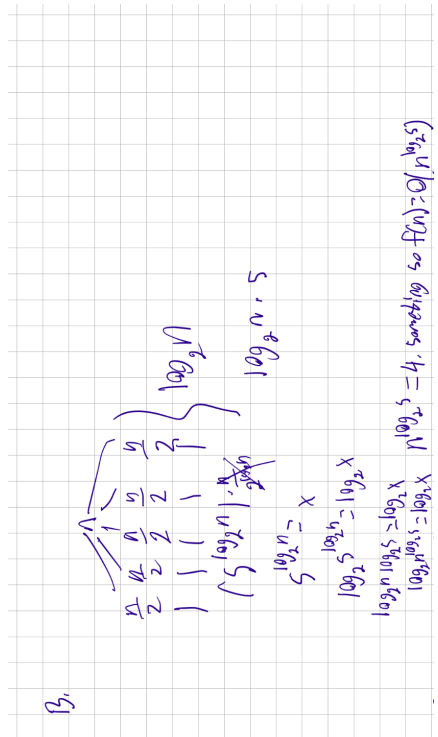

Figure 2: Recursion tree for algorithm B.

For each algorithm, write a recurrence for its runtime and *use the recursion tree method* to solve this recurrence and find the *tightest asymptotic* upper bound on runtime of the algorithm. **(25 points)**

Problem 3. Each of the algorithms below takes as input a positive integer n and then performs some steps. For each algorithm, state the running time of the algorithm as a function of n, using Θ-notation.
(15 points)

a)
- For $i = 1$ to $n/3$
  - $j \leftarrow 10$
  - While ($j \leq i/20$)
    - Do placeholder stuff that takes $O(1)$ time
    - $j \leftarrow j + 10$

Solution. _____

b)
- While ($n \geq 1$)
  - $n \leftarrow n/3$
  - do placeholder stuff that takes $O(1)$ time.

Solution.

$f(n) = \theta(log_3 n)$

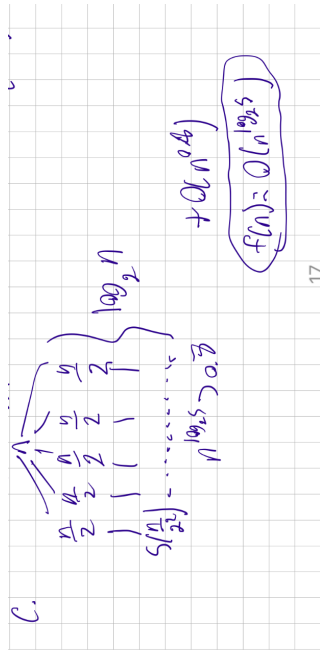

Figure 3: Recursion tree for algorithm C.

c)
- While ($n \geq 2$)
  - $n \leftarrow \sqrt{n}$
  - Do placeholder stuff that takes $O(1)$ time.

Solution.

$f(n) = \theta(\log \log n)$

---

d)
- For $i = 1$ to n
  - For $j = 1$ to i^2
    - Do placeholder stuff that takes $O(1)$ time

Solution. Solution to part (d) goes here.

---

e)
- For $i = 1$ to n
  - For $j = 1$ to $\log(i)$
    - For $k = 1$ to n
      - Do placeholder stuff that takes $O(1)$ time

Solution. Solution to part (e) goes here.

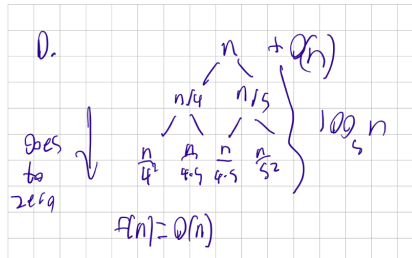

Figure 4: Recursion tree for algorithm D.

Problem 4. In this problem, we consider a non-standard sorting algorithm called the *Slow Sort*. Given an array $A[1:n]$ of n integers, the algorithm is as follows:

- **Slow-Sort**$(A[1:n])$:
  1. If $n < 100$, run merge sort (or selection sort or insertion sort) on A.
  2. Otherwise, run **Slow-Sort**$(A[1:n-1])$, **Slow-Sort**$(A[2:n])$, and **Slow-Sort**$(A[1:n-1])$ again.

We now analyze this algorithm.

(a) Prove the correctness of **Slow-Sort**. **(15 points)**

Solution. Solution to part (a) goes here.

(b) Write a recurrence for **Slow-Sort** and use the recursion tree method to solve this recurrence and find the *tightest asymptotic* upper bound on the runtime of **Slow-Sort**. **(10 points)**

Solution. Solution to part (b) goes here.

Problem 5. Karatsuba multiplication reduces the time complexity of multiplying two n-digit numbers to $O(n^{\log_2 3}) \approx O(n^{1.585})$, using the recurrence:

$$T(n) = 3T(n/2) + O(n)$$

The algorithm splits the numbers as follows:

$$x = x_1 \cdot 10^{n/2} + x_0, \quad y = y_1 \cdot 10^{n/2} + y_0$$

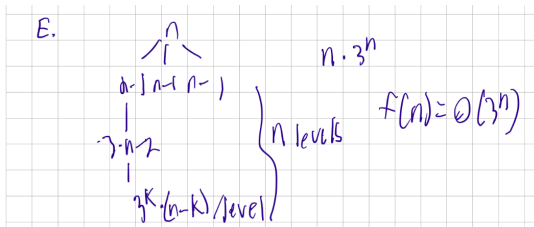

Figure 5: Recursion tree for algorithm E.

and computes three products: $x_0 \cdot y_0$, $x_1 \cdot y_1$, and $(x_0 + x_1) \cdot (y_0 + y_1)$.

Two values you are multiplying might be n/2 + 1 digits each, rather than n/2 digits, since the addition might have led to a carry. For instance compute $(x_1 + x_0)(y_1 + y_0)$ for $x = 53$ and $y = 52$. Notice the carry and the extra digit. So the recurrence will be

$$T(n) = 2T(n/2) + T(n/2 + 1) + O(n)$$

Prove that this issue won't affect our analysis and we still $O(n^{\log_2 3})$ complexity. **(20 points)**

Solution. Solution to Problem 5 goes here.

Problem 6. Toom-Cook multiplication generalizes Karatsuba by dividing numbers into more parts. The Toom-3 algorithm splits two n-digit numbers x and y into three smaller parts:

$$x = x_2 \cdot 10^{2k} + x_1 \cdot 10^k + x_0, \quad y = y_2 \cdot 10^{2k} + y_1 \cdot 10^k + y_0$$

If we multiply we need to perform 9 multiplications $x_i y_j$ of size $n/3$.

1. Write down the recurrence relation for the time complexity of the simple divide and conquer algorithm and solve it.
2. Toom-3 algorithm instead only uses 5 smaller multiplications to calculate all the 9 products needed. Find the time complexity of Toom-3.

(20 points)

Solution. Solution to Problem 6 goes here.

Challenge Yourself. We have an n-story building and a series of magical vases that work as follows: there is some unknown level L in the building that if we throw these vases down from any of the levels $L, L+1, \ldots, n$, they will definitely break; however, no matter how many times we throw the vases down from any level below L nothing will happen them. Our goal in this question is to determine this level L by throwing the vases from different levels of the building (!).

For each of the scenarios below, design an algorithm that uses asymptotically the smallest number of times we throw a vase (so the measure of efficiency for us is the number of vase throws).

(a) When we have only one vase. Once we break the vase, there is nothing else we can do. **(+2 points)**

(b) When we have four vases. Once we break all four vases, there is nothing else we can do. **(+4 points)**

(c) When we have an unlimited number of vases. **(+4 points)**